SECTION 1: GENERAL APTITUDE TEST
Time -- 40 minutes
60 Questions (1 - 60)

NAME: _____
SCHOOL: _____
SIMULATED EXAM - SET B

For each question, choose the best answer and darken the corresponding oval on the answer sheet.

1. Which figure makes the best comparison?

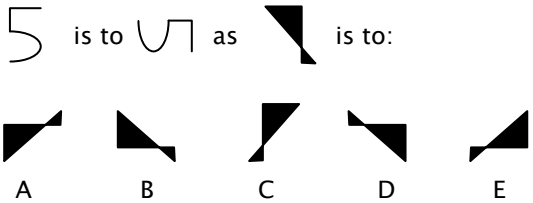

2. If a 500-foot canal can be cleaned by 24 volunteers in 4 hours, how many volunteers would be needed to clean the canal in 2 hours?
   A. 12
   B. 18
   C. 24
   D. 36
   E. 48

3. Complete the sequence: 11, 14, 19, 26, 35, ____
   A. 42
   B. 46
   C. 48
   D. 51
   E. 55

4. Which figure best completes the given?

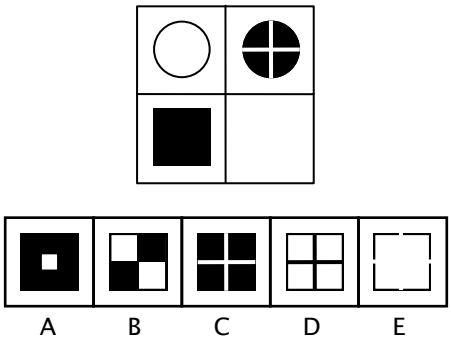

5. embarass : abash :: arrogant :
   A. humble
   B. frivolous
   C. bumptious
   D. plebeian
   E. cockeyed

6. A rope is divided into three parts in such a way that the ratio of the parts is 3:5:6. What fraction of the original length is the longest part?
   A. three-sevenths
   B. one-sixth
   C. one-third
   D. three-fourths
   E. one-half

7. If 12 workers are needed to complete a job order in 3 weeks, how many workers would be needed to complete the same job order in one-third the time?
   A. 4
   B. 18
   C. 24
   D. 30
   E. 36

8. A new brand of motorcycle consumes 2 liters of gasoline to travel 90 kilometers. At the same rate, how many liters of gasoline would it consume in order to travel 150 kilometers?
   A. 3
   B. 3 1/3
   C. 4
   D. 4 1/2
   E. 5

9. Which word does NOT have a similar meaning to the word *mesmerize*?
   A. spellbind
   B. enthrall
   C. hypnotize
   D. pique
   E. bedazzle

10. One and a half cups of condensed milk is needed to make 30 pieces of "yema candy." How many pieces can be made with 5 cups?
   A. 75 servings
   B. 90 servings
   C. 100 servings
   D. 120 servings
   E. 1500 servings

11. Supply the missing item in the sequence:
   3, 8, 7, 12, 9, 14, 12, ____.
   A. 15
   B. 17
   C. 19
   D. 20
   E. 21

12. gorilla : primate ::
   A. doctor : aristocrat
   B. accountant : bureaucrat
   C. vertebrate : bird
   D. water : compound
   E. flower : mineral

13. The words *drop* and *buy* can be combined with the same word to form compound words. Which of the following letters ends that word?
   A. L
   B. T
   C. C
   D. S
   E. W

14. Which figure is the odd one out?

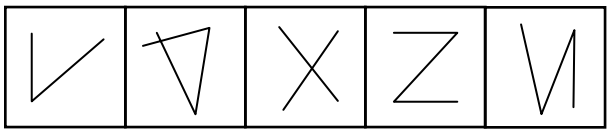

A B C D E

15. Complete the sequence: 1, 2, 8, 64, ____.
   A. 128
   B. 256
   C. 512
   D. 1024
   E. 2048

16. Complete the sequence.

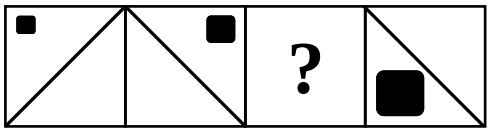

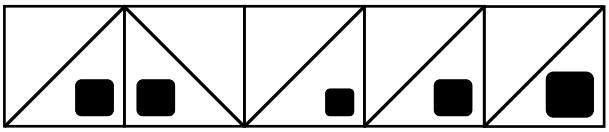

A B C D E

17. The jumbled words below can form a complete and grammatically correct sentence. What is the last letter of the first word of the sentence?
   beings speaking human an is skill intuitive for
   A. S
   B. G
   C. N
   D. L
   E. E

18. Printer A can print 24 pages in 2 minutes while Printer B can print 72 pages in 12 minutes. How many pages can be printed by the two printers in 5 minutes?
   A. 64 pages
   B. 90 pages
   C. 96 pages
   D. 102 pages
   E. 108 pages

19. Which figure best completes the given?

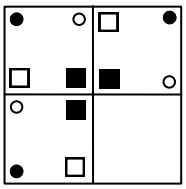

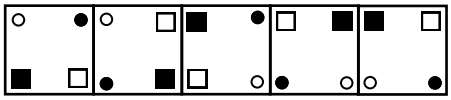

A B C D E

20. Which word best relates to the set of words below?

BURN WARMING BEAT ACHE BREAK

A. THROB
B. COLD
C. ROCK
D. SKY
E. MIND

21. Which of the following words, when horizontally written in uppercase on the glass door, can be read the same way from either side of the door?

A. ana
B. haha
C. lol
D. ewe
E. maam

22. A wall clock loses 3 seconds every day. Approximately, how many minutes would the wall clock have lost in one year (365 days)?

A. 9
B. 36
C. 18
D. 54
E. 1095

23. Which word best fits the set of words below?

DAY FLASH HEAD LIME SPOT

A. CARE
B. DRIVE
C. HOT
D. LIGHT
E. LIFE

24. tuxedo : suit ::

A. galleon : ship
B. computer : circuit
C. abode : home
D. limousine : car
E. hovel : house

25. A man decides to share his savings with his wife, son, and daughter in a ratio 2:3:4. Which of the following is not a possible amount of the man's savings if his wife, son, and daughter would each receive an exact amount (in thousand pesos)?

A. 400 thousand pesos
B. 234 thousand pesos
C. 72 thousand pesos
D. 180 thousand pesos
E. 369 thousand pesos

26. A woman bought two dozen eggs for 360 pesos. The amount she received in selling 3 eggs was the same as the amount she originally paid for 4 eggs. How much money did she receive by selling all of them?

A. 400 pesos
B. 450 pesos
C. 480 pesos
D. 500 pesos
E. 540 pesos

27. Complete the sequence: 2B, 4D, 6F, 8H, ____
    A. 10K
    B. 10J
    C. 9J
    D. 9K
    E. 11L

28. The words *break* and *show* can be combined with the same word to form compound word. Which of the following letters begins that same word?
    A. E
    B. C
    C. D
    D. U
    E. B

29. The words *leaf* and *out* can be combined with the same word to form compound words. Which of the following letters begins that same word?
    A. B
    B. L
    C. S
    D. E
    E. G

30. Complete the sequence:

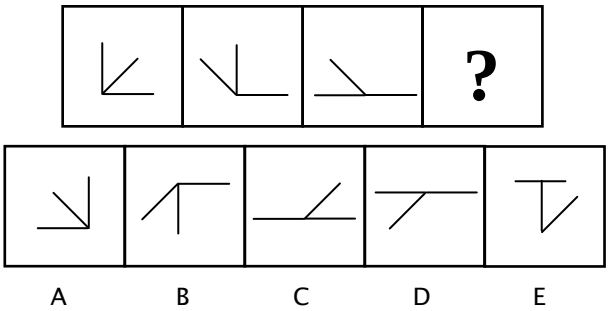

31. Which figure is the odd one out?

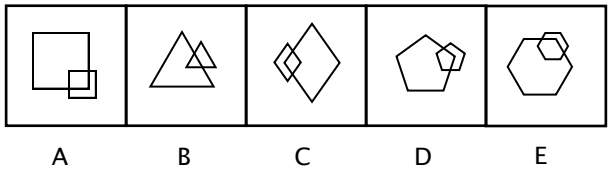

32. vindictive : revenge :: blameless :
    A. vindication
    B. servility
    C. sobriety
    D. strength
    E. exoneration

33. There are a total of 135 blue, red and white balls. If the ratio of the number of blue to red to white balls is 2:3:4, how many red balls are there?
    A. 15
    B. 18
    C. 30
    D. 45
    E. 48

34. The jumbled words below can form a complete and grammatically correct sentence. Which letter should come last in the sentence?
    read what we are only not we
    A. T
    B. Y
    C. E
    D. D
    E. R

35. The average of three numbers is 105. One number is 125. The second number is 75. What is the third number?
    A. 90
    B. 95
    C. 105
    D. 115
    E. 120

36. Twelve farmers can harvest 2 hectares of rice in 3 days. How many farmers will it take to harvest 5 hectares in 10 days?
    A. 9
    B. 6
    C. 1
    D. 12
    E. 15

37. Which figure makes the best comparison?

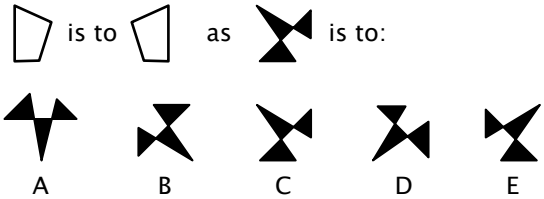

38. Carter has 220 baseball cards. His album holds 12 cards on each page. How many pages will he need in his album to hold all of his cards?
    A. 18
    B. 19
    C. 20
    D. 24
    E. 25

39. Complete the sequence.

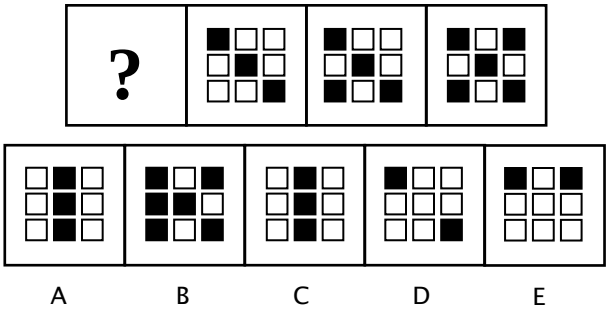

40. The jumbled words below can form a complete and grammatically correct sentence. What is the last letter of the first word of the sentence?

    unique homo sapiens language is to
    A. O
    B. E
    C. S
    D. H
    E. U

41. Complete the sequence: 8, 13, 20, 29, 40, _____
    A. 51
    B. 53
    C. 55
    D. 57
    E. 60

42. A boy bought a burger and a soft drink for 58 pesos. If the cost of one burger was 18 pesos more than the cost of one soft drink, what would be the cost of one burger?
    A. 38 pesos
    B. 18 pesos
    C. 24 pesos
    D. 40 pesos
    E. 16 pesos

43. thermometer : measure ::
    A. blanket : decorate
    B. gauge : predict
    C. thermos : heat
    D. anchor : hold
    E. pencil : sharpen

44. The words *clock* and *length* can be combined with the same word to form compound words. Which of the following letters ends that same word?
A. P
B. D
C. R
D. S
E. E

45. Which figure best completes the given?

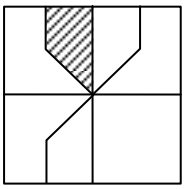

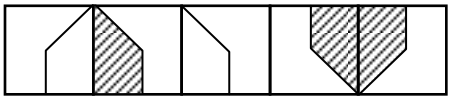

A B C D E

46. What is next in the sequence?
1, 2, 4, 8, 10, 20, _____
A. 16
B. 18
C. 22
D. 40
E. 42

47. The jumbled words below can form a complete and grammatically correct sentence. Which letter does the sixth word begin with?
pasta unpalatable and honey is combination an
A. P
B. U
C. A
D. H
E. C

48. A certain brand of liquid soap states that a 500 mL of that soap would be enough for 60 washes. Approximately how much liquid soap would have been consumed for every wash?
A. 8 mL
B. 10 mL
C. 18 mL
D. 24 mL
E. 36 mL

49. If a 540-peso jacket would be marked up by 200%, what would be its new selling price?
A. 2,700 pesos
B. 2,160 pesos
C. 1,620 pesos
D. 1,080 pesos
E. 540 pesos

50. Which figure is the odd one out?

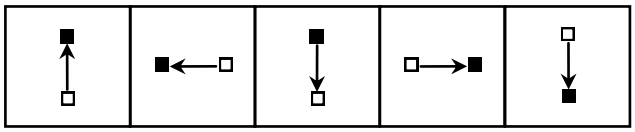

A B C D E

51. Which word best relates to the set of words below?
MY YOUR HER HIM IT
A. ONE
B. BOOK
C. ARM
D. NAME
E. PERSON

52. kennel : dog ::
A. stable : horse
B. sty : sheep
C. corral : pigs
D. coop : fox
E. nest : cat

53. Which word best fits the set of words below?

COURT BACK GRAVE SHIP SCHOOL

A. JUMP
B. PLAY
C. OFFICE
D. JUNK
E. FRONT

54. If 16 bookshelves require 24 square feet of plywood, how many square feet of plywood will 32 bookshelves require?

A. 40
B. 45
C. 46
D. 48
E. 54

55. Which figure completes the sequence?

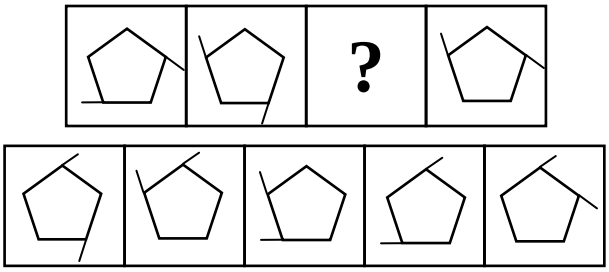

A B C D E

56. What is the next number in the sequence 1, 2, 3, 6, 8, 16, 18, _____ ?

A. 26
B. 28
C. 36
D. 38
E. 42

57. What is next in the following sequence?

MR, SN, OT, UP, QV, _____

A. WR
B. RR
C. ST
D. UV
E. RX

58. Which word best relates to the set of words below?

CREDIT ENTRY JOURNAL BALANCE CASH

A. SPRING
B. EXIT
C. LOVE
D. ASSET
E. REFLECTION

59. Which of the following words is synonymous to the word <u>confute</u>?

A. confirm
B. confound
C. attest
D. reveal
E. distort

60. Which of the following words is most similar in meaning to the word <u>depose</u>?

A. designate
B. oust
C. arise
D. accept
E. relinquish