SECTION 6: MIXED PART
Time -- 60 minutes
40 Questions (231 – 270)

NAME: _____
SCHOOL: _____
SIMULATED EXAM – SET B

For each question, decide which the best answer choice is, and darken the corresponding oval on the answer sheet.

231. Worldwide illiteracy rates have consistently declined in the last few decades.

There was a sharp increase of literacy rates among young women, which is a result of specific campaigns designed to increase educational opportunities for girls.

What does the second sentence do?
A. It repeats the idea in the first.
B. It explains the idea in the first.
C. It presents contradiction.
D. It states a cause.
E. It draws conclusion from the idea in the first.

232. Walnut trees exude a chemical into the soil near their roots which can be poisonous to some trees and shrubs.

Fruit trees will not survive if planted too close to a walnut tree.

What does the second sentence do?
A. It gives a solution.
B. It presents another idea.
C. It provides example.
D. It summarizes the idea in the first.
E. It restates the idea in the first.

233. A lack of public school education did not prevent Abraham Lincoln from being a great leader.

He led the United States through four years of civil war, and through his leadership, slavery was abolished in the country.

What does the second sentence do?
A. It states an effect.
B. It provides supporting evidence.
C. It restates the idea in the first.
D. It explains the idea in the first.
E. It draws a conclusion from the idea in the first.

234. States have slashed education budgets to cope with falling tax revenues and rising deficits.

Parents and community organizations across the country are devising resourceful ways to raise money for local schools.

How are the two sentences related?
A. They present cause and effect.
B. They present problem and solution.
C. They present contrasting ideas.
D. The second sentence provides support evidence for the first.
E. The second sentence draws a conclusion from the idea stated in the first.

235. Everyone is sensitive to extreme weather conditions.

With age, the body becomes less responsive to long exposure to very hot or very cold temperature.

How are the two sentence related?

A. They contradict one another.
B. They repeat the same idea.
C. They present cause and effect.
D. The second exemplifies the idea found in the first.
E. The second sentence explains the idea in the first.

236. The use of unconventional healthcare practices has steadily increased in the last 30 years, and the trend is likely to continue.

People seek therapies that relieve symptoms associated with chronic disease; symptoms that mainstream medicine cannot treat.

What does the second sentence do?

A. It analyzes the statement made in the first.
B. It supports the idea found in the first.
C. It draws conclusion.
D. It states a cause.
E. It presents a contradiction.

237. Bicycles are elegantly simple machine that are common around the world.

Many people ride bicycles for recreation, whereas others use them as means of transportation.

How are the two sentences related?

A. The second sentence draws a conclusion from the idea stated in the first.
B. The second sentence elaborates the idea in the first.
C. The second sentence provides supporting ideas for the first.
D. They repeat the same idea.
E. They contradict one another.

238. One of the most hazardous conditions a firefighter will ever encounter is a backdraft, or also known as a smoke explosion.

Proper ventilation will make a backdraft less likely; opening a room or building at the highest point allows heated gases and smoke to be released gradually.

What does sentence 2 do in relation to sentence 1?

A. The second sentence explains the idea in the first.
B. The second sentence provides evidence for the first.
C. The second sentence draws a conclusion in the first.
D. The second sentence elaborates the idea in the first.
E. The second sentence proposes solution for the first.

239. Arteries of the heart blocked by plaque can reduced the flow of the blood to the heart possibly resulting a heart attack or death.

Plaque is actually a fat and cholesterol that accumulates on the inside of the arteries.

What does the second sentence do?

A. It restates the idea in the first.
B. It presents supporting details for the first.
C. It gives an example.
D. It provides additional information for the first.
E. It explains the idea in the first.

240. Critical reading is a demanding process.

You must slow down your reading and, with pencil in hand; perform specific operations on the text.

What does the second sentence do?

A. It presents evidence.
B. It explains the idea in the first.
C. It provides an example.
D. It draws a conclusion.
E. It states an effect.

241. Archimedes was tasked to test whether the king's crown was pure gold. Given that the density of pure gold is 19.32 g/cm$^3$, was the crown pure gold or not?

Statement 1: The mass of the crown is 0.45 kg.
Statement 2: The volume of the crown is 9 L.

Which of the statements above makes it possible to answer the question?

A. Statement 1 is necessary, but statement 2 is not necessary.
B. Statement 2 is necessary, but statement 1 is not necessary.
C. Both statements are necessary.
D. Statements 1 and 2 together are insufficient.
E. Both statements are not necessary.

242. Researchers discovered that lipstick can become contaminated with bacteria that cause mononucleosis. They found that contamination usually arises after the lipstick has been used for six months. Hence, women should dispose of any lipstick after six months of use.

Which of the following, if true, would most weaken the conclusion above?

A. The researchers found that, after six weeks of use, greater length of lipstick use did not correlate with a higher number of bacteria being present.
B. The researchers concluded that using a contaminated lipstick does not increase the incidence of infection.
C. The researchers could not discover why lipstick contamination usually occurred only after six months of use.
D. The researchers failed to investigate contamination of lipstick by viruses, yeasts, and other pathogenic microorganisms.
E. The researchers found that people who wiped their lipsticks clean after each use were as likely to have contaminated lipsticks as were as people who never wiped their lipsticks.

243. Unlike the wholesale price of uncut diamonds, the wholesale price of other uncut gemstones has greatly fallen in the last year. Hence, even though the retail price of jewelry made with gemstones other than diamonds has not yet fallen, it will certainly fall.

Which of the following, if true, most weakens the argument above?

A. The operating costs of the average retail jewelry store have remained constant during the last year.
B. The cost of processing uncut gemstones has increased during the last year.
C. The wholesale price of uncut diamonds is typically higher than that of the same volume of other uncut gemstones.
D. Changes in retail prices always lag behind changes in wholesome prices.
E. The cost of mining gemstones other than diamonds has increased in the last year.

244. A company has initiated a health program for its employees that enable the worker, free of charge, to receive a monthly massage treatment, consult with a dietician and attend lectures in healthy living. These programs increase workers' productivity and decreased their absenteeism. Consequently, these programs provide as much benefit to the company as they do to the employees.

Which of the following, if true, most strengthens the conclusion above?

A. Employee assistance programs require companies to hire people to supervise the various programs offered.
B. Health programs are often the most popular services offered to employees.
C. Dizziness sometimes results from beginning a course of massage treatments.
D. Regular massage treatments and dietary counseling reduce people's risk of catching flu or a cold and provides them with increased energy.
E. Studies have shown that such health programs are not effective for many people.

245. The cost of manufacturing sports shoes in Macao is 25% less than the cost of manufacturing them in the Philippines. Even after transportation fees and tariff charges are added, it still cheaper for a company to import sports shoes from Macao to the Philippines.

The statement above, if true, best support which of the following assertions?

A. The fee for transporting a pair of sports shoes from Macao to the Philippines is more than 25% of cost of manufacturing the shoes in Macao.
B. Labor costs in Macao are 25% below those in the Philippines.
C. Importing sports shoes from Macao to the Philippines will eliminate 25% of the manufacturing jobs in the Philippines.
D. It takes 25% less time to manufacture a pair of sports shoes in Macao than it does in the Philippines.
E. The tariff on sports shoes imported from Macao to the Philippines is less than 25% of the cost of manufacturing sports shoes in the Philippines.

246. Opponents of laws that require motorcycle riders to wear helmets argue that in a free society, people have the right to take risks as long as the people do not harm others as a result of taking the risks. As a result, they conclude that it should be each person's decision whether or not to wear a helmet.

Which of the following, if true, most weakens the conclusion drawn above?

A. Participants in certain extreme sports are required to wear helmets.
B. Motorcycle insurance rates for all motorcycles owners are higher because of the requirement to pay for the increased injuries and deaths of people not wearing helmets.
C. In motorcycles incidents, a greater number of passengers who do not wear helmets are injured than are passengers who do wear helmets.
D. Many new motorcycles are built sith safety features that made them less likely to be involved in an accident.
E. The rate of automobile facilities in states that do not have mandatory helmet laws is greater than trhe rate of facilities in states that do have such laws.

247. Parents of some of the students in the class of Mr. Benavides have claimed that the teacher is not objective and favors his female students with higher grades. But the record has shown that 90% of the male students received a passing grade in this teacher's class. This record demostrates that Mr. Benavides has not discriminated against men when assigning grades.

The argument above is flawed in that it ignored the possibility that

A. the majority of tests written by male students and that have been rechecked by another teacher were given a higher grade by the second teacher.
B. many teachers find it difficult to be objective when assigning grades to male and female students.
C. a large number of Mr. Benavides' student were in his class the previous year.
D. Mr. Benavides is biased against male students in the case of only some of the subject's teacher.
E. the evidence shows that more than 90% of male students should have received a passing grade.

248. In the Philippines, the number of young adults that are illiterate has dropped significantly over the last sixteen years. Education officials attribute this decrease entirely to improved conditions in the schools, which made for a better teaching environment, reducing the level of illiteracy.

Which of the following, if true, would most seriously weaken the education officials' explanation for the lower incidence of the disease?

A. The same percentage of the population has been tested every year for the last 30 years.
B. The conditions in the schools were brought up to the standards of the neighboring countries twenty years ago.
C. Home-schooling has not been more prevalent among the illiterate as compared to people who are literate.

D. Because of a new assessment scale, many people who until this year would have been considered as illiterate are now considered as low-level readers.
E. Many similar improvements in school conditions have been made over the last twenty-five years in the country.

Questions 249-253 are based on the following information.

Aster wants to plant flowers. She has seven flowers and eight spaces in which she may plant them. She has red nasturtiums, white vervains, pink gerberas, red plumerias, purple celosias, white peonies, and white calla lilies.

I. No flowers of the same color can be planted next to each other.
II. Peonies must be either in the first space or in the seventh space.
III. Celosias must be right before the vervains and right after the peonies.
IV. The calla lilies must be planted in the last space.
V. A red flower must be in spaces four and six.
VI. A pink flower must have exactly one space between it and a white flower.

249. In which space will the plumerias be planted?
A. six or seven
B. one or seven
C. two or three
D. three or five
E. four or six

250. Which of the following spaces will have no flower planted in it?
A. seventh
B. sixth
C. fifth
D. fourth
E. third

251. How many spaces are between the gerberas and the closest white flower?
A. five
B. four
C. three
D. two
E. one

252. How many flowers will be between the daisies and the closest purple flower?
A. five
B. four
C. three
D. two
E. one

253. Which of the following statements is not necessarily true?
A. The celosias are in space two.
B. There are two spaces between the peonies and a red flower.
C. The vervains are before the plumerias.
D. There are three spaces between an empty space and the vervains.
E. One space is between the plumerias and the celosias.

Questions 254-258 are based on the following information.

Five vacancies have just opened up the Board of Directors. These vacancies must be filled by three newcomers and two veterans. The newcomers interested in the job are Danny, Marie, Johnny, Lilia, and Yssa. The veterans interested in the job are Tim, Kyle, and Vito.

I. Tim will not serve with Kyle.
II. Neither Johnny nor Lilia will serve with Vito.
III. Yssa will not serve with Tim.

254. If Tim may serve with Kyle but all other rules remain in force, which of the following groupings is not possible?

I. Tim, Danny, Marie, Johnny, Lilia
II. Kyle, Vito, Danny, Marie, Yssa
III. Tim, Kyle, Marie Johnny, Lilia
IV. Kyle, Vito, Danny, Marie, Lilia

A. I only
B. II only
C. III only
D. I and IV only
E. I, II, and III only

255. If the board agrees to have six members, three veterans and three trainees, how many groupings are possible?
A. 4
B. 3
C. 2
D. 1
E. 0

256. How many possible groups of persons can serve on the board?
A. 5
B. 4
C. 3
D. 2
E. 1

257. Which of the following cannot serve on the board if Kyle serves?
A. Johnny
B. Danny
C. Vito
D. Yssa
E. Marie

258. If Yssa were replaced by Risa, who has no restrictions on the people with whom he will serve, how many different groups are possible?
A. 5
B. 4
C. 3
D. 2
E. 1

259. The table below shows the scores of students in a certain subject wherein 10 is the perfect score.

| Score | Frequency |
|---|---|
| 10 | 2 |
| 8 | 16 |
| 6 | 14 |
| 4 | 10 |
| 2 | 8 |

If 6 is the passing score, what percent of the class passed?
A. 14%
B. 28%
C. 36%
D. 64%
E. 80%

260. Refer to the graph below.

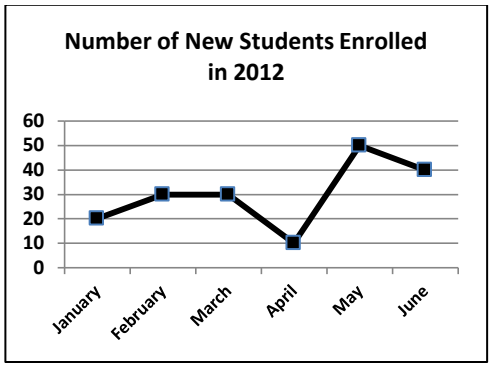


What is the average of the new students enrolled from January to June of 2012?

A. 20
B. 25
C. 30
D. 35
E. 40

261. The scores obtained by students in a Geometry class are shown in the table below.

| Score | Frequency |
|---|---|
| 11 | 1 |
| 12 | 8 |
| 13 | 11 |
| 14 | 2 |
| 15 | 3 |

If 13.5 is the passing score, what percent of the class failed?

A. 8%
B. 36%
C. 44%
D. 80%
E. 88%

262. A 300-meter long train moving at a constant speed passes a tree in 12 seconds. What is the speed of the train?

A. 75 km/h
B. 90 km/h
C. 100 km/h
D. 120 km/h
E. 150 km/h

263. A train traveling at 90 km/h passes a pole in 6 seconds. How long is the train?

A. 50 meters
B. 60 meters
C. 90 meters
D. 120 meters
E. 150 meters

264. If you arrange the squares below to form a cube, which face is the opposite of 3?

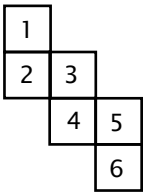


A. 1
B. 2
C. 4
D. 5
E. 6

<u>Questions 265 – 266 are based on the following information:</u>

Four men, A, B, C, and D, are seated on 5 chairs in a row.

I. C sits in either the first seat or the last seat.
II. A sits two spaces to the right of C.
III. There is one space between A and the empty space.
IV. D sits to the right of A.

265. Which seat is empty?

A. first
B. second
C. third
D. fourth
E. fifth

266. From which of the following statements did you deduce the seat in which C sits?

A. I only
B. II only
C. I and II
D. I and III
E. I, II, and III

267. If you arrange the squares below to form a cube, which face is not adjacent to 2?

A. 1
B. 3
C. 4
D. 5
E. 6

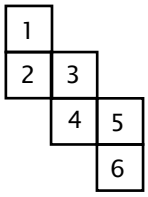


Questions 268 – 270 are based on the graph below:

Velocity vs Time Graph

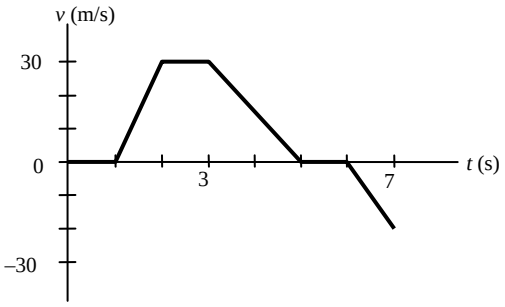


268. At what time interval/s is the car decreasing speed?

A. 0 s – 1 s, 5 s – 6 s
B. 0 s – 1 s, 2 s – 6 s, 5 s – 6 s
C. 2 s – 3 s
D. 6 s – 7 s
E. 3 s – 5 s

269. At what time interval/s is the car has a constant speed?

A. 0 s – 1 s, 2 s – 3 s, 5 s – 6 s
B. 1 s – 2 s
C. 3 s – 5 s, 6 s – 7 s
D. 2 s – 3 s
E. 0 s – 1 s

270. At what time interval/s is the car increasing speed?

A. 1 s – 2 s
B. 2 s – 3 s
C. 1 s – 5 s,
D. 1 s – 2 s, 6 s – 7 s
E. 2 s – 5 s