U S T E T 2 0 1 5

SECTION 1: MENTAL ABILITY TEST
Time – 30 minutes
80 Questions

NAME: _____
SCHOOL: _____

For each question, decide which is the best answer choice, and encircle the corresponding letter.

1. Which of the following is a prime number that is between 95 and 102?
   (1) 96 (2) 97 (3) 98 (4) 99

2. In rolling a die, what is the probability of getting a perfect square?
   (1) 1/6 (2) 1/4 (3) 1/3 (4) 1/2

3. The sum of the reciprocal of a number and 3 is 7. What is the number?
   (1) 4 (2) 1/4 (3) 5 (4) 1/7

4. Which is the odd one out?

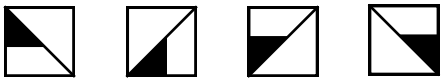

(1) (2) (3) (4)

5. Complete the sequence: 1, 1, 2, 3, 5, 8, 13, ____
   (1) 18 (2) 20 (3) 21 (4) 23

6. There is a mistake in the sequence 1, 6, 2, 7, 3, 9, 4, 9, 5. What is it?
   (1) 1 (2) 2 (3) 6 (4) 9

7. Find the next figure in the sequence.

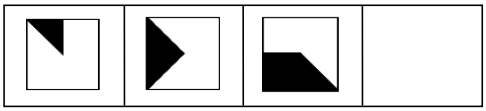



(1) (2) (3) (4)

8. To make 3 glasses of apple juice, you need 4 apples. How many apples will be needed to make 9 glasses?
   (1) 9 apples (2) 12 apples (3) 15 apples (4) 18 apples

9. A baker uses 400 grams of flour to make a loaf of bread. How many grams of flour will be needed to make 2 loaves?
   (1) 200 grams (2) 800 grams (3) 1200 grams (4) 1500 grams

10. Which word does NOT have the same meaning with the word *cherubic*?
    (1) sweet (2) childish (3) innocent (4) kind

11. Which word does NOT have a similar meaning to the word *mesmerize*?
    (1) spellbind (2) pique (3) enthrall (4) bedazzle

Kommentar [A1]: USTET

Mental Ability Test
80 Questions in 30 minutes

Test Types
I. Verbal Analogy (10 items) – may not be included in this part…English probably
II. Math Problems
(5 items) Ratio and Proportion
(5 items) Variation Word Problems
(5 items) Probability (Basic 1 die or two coins)
(5 items) Percenetage
(5 items) Number problems – reciprocal thing

III. Situational Problems (5 items)
IV. Synonyms (10 items)
V. Antonyms (10 items)
VI. Arrange word to form sentence and then what is the first letter of the second word (5 items)
VII. Number Sequence (5 items)
VIII. Syllogism (8 items)

Others (Weird Questions)
What is the opposite of love?
Which of the ff dog doesn't have?
Which of the ff most resembles a fox?

Kommentar [A2]:

Kommentar [A3]:

Kommentar [A4]:

Kommentar [A5]:

Kommentar [A6]:

Kommentar [A7]:

Kommentar [A8]:

Kommentar [A9]:

Kommentar [A10]:

12. If x and y are real numbers and x – 50 = y – 50, then which of the following is true?
(1) x = y (2) x > y (3) x < y (4) x + y = 100

Kommentar [A11]:

13. In tossing two coins, what is the probability of getting at least one head?
(1) 1/4 (2) 1/2 (3) 3/4 (4) 1/3

Kommentar [A12]:

14. Some of the people in this place are biologists.
Some of the people in this place are policemen.
Therefore, some of the people in this place are biologist policemen.
(1) True (2) False (3) Cannot be certain

15. All scientists are smart people.
James is a smart person.
Therefore, James is a scientist.
(1) True (2) False (3) Cannot be certain

16. Which of the following is true regarding the rectangles below?

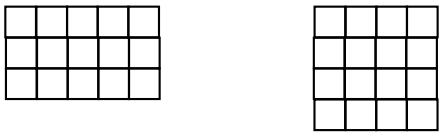

(1) They have the same area.
(2) They have the same length.
(3) They have different perimeter.
(4) They have different area.

Kommentar [A13]:

17. Complete the sequence: 3, ____, 12, 24, 48
(1) 4 (2) 6 (3) 8 (4) 10

Kommentar [A14]:

18. What is next in the sequence 3, 5, 9, 17, 33?
(1) 62 (2) 63 (3) 64 (4) 65

Kommentar [A15]:

19. Andrea bought 3 packs of chocolate candies and 2 packs of strawberry candies. Each pack contains 12 candies. How many candies did Andrea buy?
(1) 48 (2) 60 (3) 72 (4) 80

Kommentar [A16]:

20. Find the next figure in the sequence.

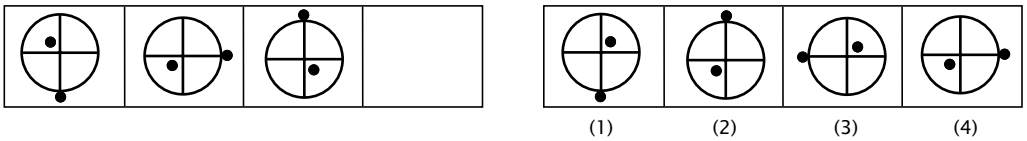

(1) (2) (3) (4)

21. CELEBRATE : MARRIAGE :: _____
(1) announce : birthday
(2) report : injury
(3) lament : bereavement
(4) face : penalty

22. CACHE : HIDE : : _____
    (1) forgiveness : punish
    (2) stockpile : accumulate
    (3) testimony : falsify
    (4) treasure : money

23. TANGLED : KNOT : : _____
    (1) snarled : rope
    (2) crumpled : wrinkle
    (3) empty : hole
    (4) canned : preserves

24. If 5 + 12 = 2 + 3x, what must be the value of x?
    (1) 3 (2) 4 (3) 5 (4) 6

25. Complete the sequence: c a d b e ___ f d g
    (1) b (2) c (3) d (4) e

26. Complete the sequence: 2, ____, 4, 12, 48
    (1) 2 (2) 3 (3) 4 (4) 5

27. Which is the odd one out?

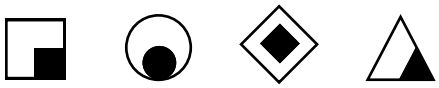

(1) (2) (3) (4)

28. Great basketball players practice often.
    Michael Jordan, a basketball player, practices often.
    Therefore, Michael Jordan is a great basketball player.
    (1) True (2) False (3) Cannot be certain

29. Rich Filipinos live in beautiful houses.
    Mr. Santos, a Filipino, lives in a beautiful house.
    Therefore, Mr. Santos is a rich man.
    (1) True (2) False (3) Cannot be certain

30. The jumbled words below can form a complete and grammatically correct sentence. In which letter does the fifth word begin?
    plants fall of seeds may to ground the
    (1) P (2) F (3) G (4) S

31. The jumbled words below can form a complete and grammatically correct sentence. What is the last letter of the second word of the sentence?
    beings speaking human an is skull intuitive for
    (1) S (2) G (3) N (4) L

32. Which word does NOT have a similar meaning to the word *generous*?
    (1) charitable (2) altruistic (3) egocentric (4) philanthropic

Kommentar [A17]:
Kommentar [A18]:
Kommentar [A19]:
Kommentar [A20]:
Kommentar [A21]:
Kommentar [A22]:
Kommentar [A23]:

33. The sum of the reciprocal of a number and 4 is 9. What is the number?
(1) 5 (2) 1/5 (3) 6 (4) 1/9

34. In rolling a die, what is the probability of getting a prime number?
(1) 2/3 (2) 1/3 (3) 1/2 (4) 1/4

35. Find the next figure in the sequence.

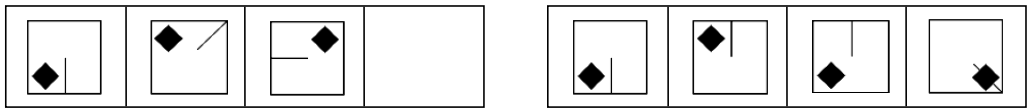

(1) (2) (3) (4)

36. Which is the odd one out?



(1) (2) (3) (4)

37. What percent of 50 is 15?
(1) 15% (2) 25% (3) 30% (4) 35%

38. Gerry traveled from his home to office at an average speed of 40 km/h for 30 minutes. How far in kilometers is his office from home?
(1) 5 km (2) 15 km (3) 20 km (4) 25 km

39. JURY : DELIBERATE : : _____
(1) candidate : deprecate
(2) precedent : preside
(3) ruse : illuminate
(4) lobbyist : persuade

40. SACCHARINE : SWEET : : _____
(1) omniscient : omnipotent
(2) sacrosanct : sacred
(3) hypocritical : dissonant
(4) lethargic : slovenly

41. PRAGMATIC : PRACTICAL : : _____
(1) unusual : ludicrous
(2) trivial : negligible
(3) opaque : translucent
(4) tenacious : faltering

42. What is next in the sequence 43, 41, 37, 31, 23?
(1) 15 (2) 14 (3) 13 (4) 12

43. The jumbled words below can form a complete and grammatically correct sentence. What is the first letter of the last word of the sentence?

leave do things not your unattended

(1) L (2) T (3) U (4) D

Kommentar [A24]:
Kommentar [A25]:
Kommentar [A26]:
Kommentar [A27]:
Kommentar [A28]:
Kommentar [A29]:
Kommentar [A30]:
Kommentar [A31]:
Kommentar [A32]:

44. The jumbled words below can form a complete and grammatically correct sentence. Which letter should come last in the sentence?

be observed must silence this area in

(1) A (2) S (3) E (4) T

45. What is the result when the sum of 3 and (-2) is subtracted from the sum of 7 and (-4)?

(1) 2 (2) 3 (3) 4 (4) 5

46. A 70-cm cord is cut into two such that the ratio of the parts is 3:4. Find the length of the longer part.

(1) 20 cm (2) 30 cm (3) 40 cm (4) 50 cm

47. Outstanding teachers in this school teach with passion.
Ms. Bartolome, a teacher in this school, teaches with passion.
Therefore, Ms. Bartolome is an outstanding teacher.

(1) True (2) False (3) Cannot be certain

48. Complete the pattern

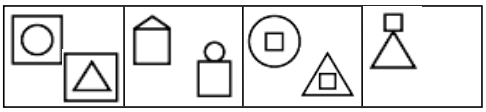

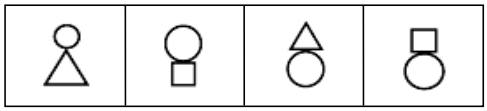

(1) (2) (3) (4)

49. Between which two numbers is 2/3?

(1) Between 1/4 and 1/2
(2) Between 1/2 and 3/4
(3) Between 3/4 and 1
(4) Between 1 and 1 1/2

50. BISHOP : ORDAINED : : _____

(1) cliché : intrepid
(2) loft : unattainable
(3) palace : stately
(4) character : humorous

51. In a line, Royce stands 11th from one end and 9th from the other end. How many are there in the line?

(1) 17 (2) 18 (3) 19 (4) 20

52. Which of the following words is synonymous with the word *clandestine*?

(1) destiny (2) open (3) exposed (4) surreptitious

53. Which of the following words is synonymous to the word *confute*?

(1) confirm (2) attest (3) confound (4) distort

54. PRECEPT : GUIDANCE : : _____

(1) alibi : defense
(2) footnote : connotation
(3) epilogue : introduction
(4) chord : music

55. Mac had earned P4,500 and Chiz had earned P5,400 last month. Find the ratio of their earnings.

(1) 5:6 (2) 4:7 (3) 2:3 (4) 3:5

Kommentar [A33]:
Kommentar [A34]:
Kommentar [A35]:
Kommentar [A36]:
Kommentar [A37]:
Kommentar [A38]:
Kommentar [A39]:
Kommentar [A40]:
Kommentar [A41]:
Kommentar [A42]:

56. All the smart pupils in the class are honor students.
Some of the pupils in the class are math contestants.
Therefore, some math contestants are honor students.
(1) True (2) False (3) Cannot be certain

57. Which of the following is NOT a multiple of 9?
(1) 1188 (2) 981 (3) 540 (4) 408

58. What is the square of the sum of 4 and 3?
(1) 25 (2) 49 (3) 64 (4) 81

59. Which is the odd one out?

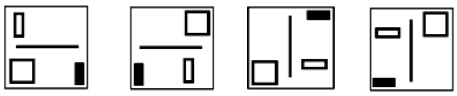

(1) (2) (3) (4)

60. CAULDRON : POT : : _____
(1) luminary : phantasm
(2) favor : currency
(3) pictograph : symbol
(4) vibration : perception

61. Which of the following words is most similar in meaning to the word *expedite*?
(1) beckon (2) exterminate (3) disrespect (4) facilitate

62. Which of the following words is most similar in meaning to the word *lenience*?
(1) austerity (2) clemency (3) ruggedness (4) loneliness

63. Which word does NOT have a similar meaning to the word *energize*?
(1) rejuvenate (2) strengthen (3) enervate (4) uplift

64. In a bag, the ratio of red marbles and green marbles is 7:3. If there are 24 green marbles in the bag, how many red marbles are there?
(1) 35 (2) 54 (3) 56 (4) 63

65. What is next in the sequence 5, 9, 15, 23, 33?
(1) 45 (2) 43 (3) 41 (4) 39

66. The sum of two numbers is 100. Their ratio is 2:3. Find the larger number of the two.
(1) 20 (2) 30 (3) 50 (4) 60

67. BUTTRESS : WALL : : _____
(1) column : pillar
(2) philanthropist : charity
(3) document : preamble
(4) cream : lotion

Kommentar [A43]:
Kommentar [A44]:
Kommentar [A45]:
Kommentar [A46]:
Kommentar [A47]:
Kommentar [A48]:
Kommentar [A49]:
Kommentar [A50]:
Kommentar [A51]:
Kommentar [A52]:

68. Sixteen is 5% of what number?
(1) 160 (2) 240 (3) 300 (4) 320

69. Some of the trees in my farm are fruit-bearing trees.
Some of the fruit-bearing trees in my farm do not bear fruits.
Therefore, some of the trees in my farm do not bear fruits.
(1) True (2) False (3) Cannot be certain

70. No lazy students pass the USTET.
Some students who passed the USTET are industrious.
Therefore, some industrious students are not lazy.
(1) True (2) False (3) Cannot be certain

71. In a class of 40, Jane ranks 24th from the last. What is Jane's position from the top?
(1) 15th (2) 16th (3) 17th (4) 18th

72. The jumbled words below can form a complete and grammatically correct sentence. What letter ends the sentence?
completely circles shade corresponding the
(1) Y (2) S (3) E (4) G

73. Which of the following words is synonymous with the word *unequivocal*?
(1) vague (2) detached (3) clear (4) abrupt

74. In a class of 48 students, there are twice as many girls as boys. How many boys are there in the class?
(1) 15 (2) 16 (3) 24 (4) 32

75. The sum of the reciprocal of a number and 5 is 8. What is the number?
(1) 3 (2) 1/3 (3) 4 (4) 1/8

76. Lucy mixed 1/2 of a cup of cold water and 1/3 of a cup of hot water in a bowl. How much water did she mix?
(1) 5/6 (2) 3/4 (3) 2/5 (4) 7/8

77. Which word does NOT have a similar meaning to the word *shapeless*?
(1) apparent (2) nebulous (3) amorphous (4) unstructured

78. A bus leaves a city traveling at a rate of 60 km/h. Find the distance traveled by the bus in 2 hours.
(1) 60 km (2) 120 km (3) 150 km (4) 180 km

79. If a supply of feeds can last for 4 days for 12 pigs, how long would the supply last if there were twice as many pigs?
(1) 2 days (2) 5 days (3) 6 days (4) 8 days

80. If 10 men can do a job in 6 hours, how long will it take 5 men to do the same job?
(1) 3 hours (2) 10 hours (3) 12 hours (4) 15 hours

Kommentar [A53]:
Kommentar [A54]:
Kommentar [A55]:
Kommentar [A56]:
Kommentar [A57]:
Kommentar [A58]:
Kommentar [A59]:
Kommentar [A60]:
Kommentar [A61]:
Kommentar [A62]:
Kommentar [A63]: